Question **1**

Not yet answered

Marked out of 5.00

Flag question

Which of the following statements related to class diagrams are FALSE:

- [x] a. To represent an abstract class or interface, you put it between <<..>> (ex: <<interface>>, <<abstract>>)
- [ ] b. The lines representing "a class extending a base class" and "a class implementing an interface" are the different
- [ ] c. Static methods are underlined
- [x] d. Abstract methods are underlined
- [x] e. The lines representing "a class extending a base class" and "a class implementing an interface" are the same

italice la fel și clasele

Having class A represented in a class diagram, which of the following statements are TRUE:

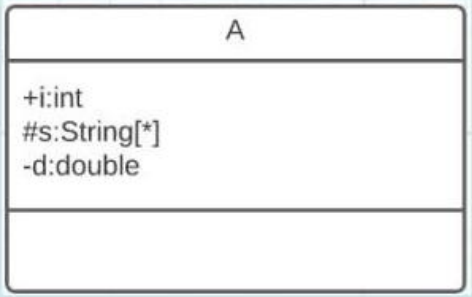

- [x] a. The collection **s** is protected
- [ ] b. Class A has 3 attributes: public int i, private double d and a list s that can contain any type of Objects, because * means any type of Object → String
- [ ] c. Class A has 3 attributes: public int i, and private double d and an optional attribute String s, because [*] means optional
- [ ] d. The collection **s** is package-private ~
- [x] e. Class A has 3 attributes: public int i, private double d and a list s with no upper limit

Deschide originalul

Having the following class diagram, which of the following code sequences matches the given class diagram:

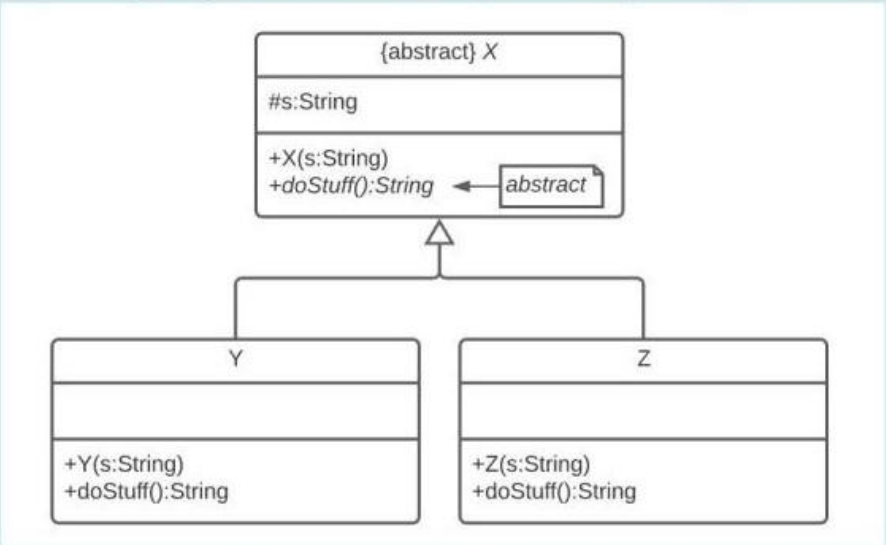

a.
```
abstract class X {
    protected String s;
    public X(String s) {...}
    public abstract String doStuff();
```

Deschide originalul

Having the following class diagram, which of the following code sequences matches the given class diagram:

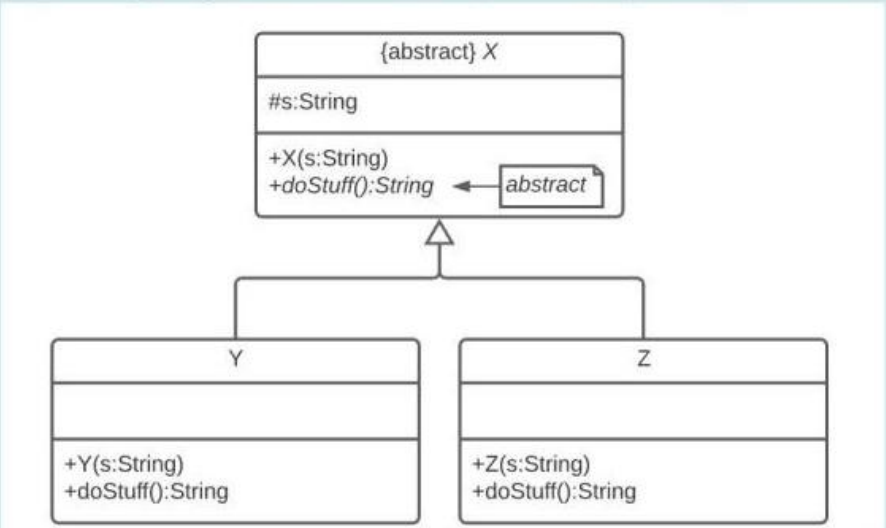

a.
```
abstract class X {
    protected String s;
    public X(String s) {...}
    public abstract String doStuff();
```

Deschide originalul

```
abstract class X {
    protected String s;
    public X(String s) {...}
    public abstract String doStuff();
}

class Y extends X {
    public Y(String s) {...}
    public String doStuff() {...}
}

class Z extends X {
    public Z(String s) {...}
    public String doStuff() {...}
}
```

Deschide originalul

b.

```
abstract class X {
    protected String s;
    public X(String s) {...}
    public abstract String doStuff();
}

class Y extends X {
    public Y(String s) {...}
    public String doStuff() {...}
}

class Z extends X {
    public Z(String s) {...}
    public String doStuff() {...}
}
```

Deschide originalul

Having the following code, which of the sequence diagrams matches the method call marked with *:

```
class Main {
    A a = new A();
    B b = new B();
    a.m(b); //*
}

class A {
    public void m(B x) {
        System.out.println(x.n());
    }
}

class B {
    public int n() {
        this.l();
        return 5;
    }
    public void l() {}
}
```

Deschide originalul

Having the following code, which of the sequence diagrams matches the method call marked with *:

```
class Main {
    A a = new A();
    B b = new B();
    a.m(b); //*
}

class A {
    public void m(B x) {
        System.out.println(x.n());
    }
}

class B {
    public int n() {
        this.l();
        return 5;
    }
    public void l() {}
}
```

Deschide originalul

d.

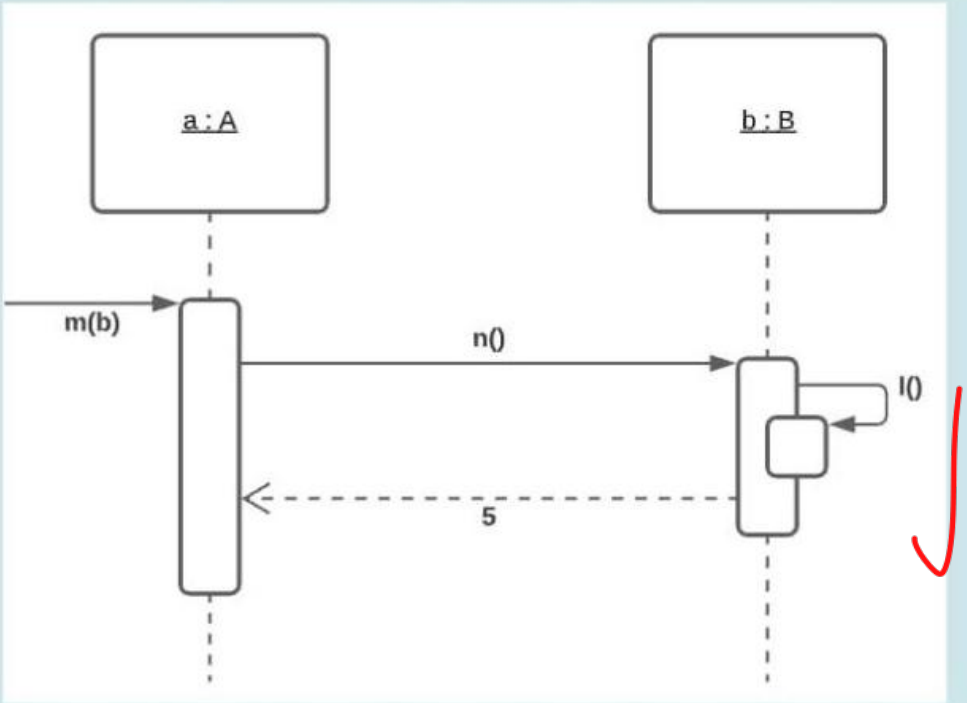

Deschide originalul

Which of the following statements related to sequence diagrams are TRUE:

- [ ] a. Sequence Diagrams offer an overview of the system's structure
- [x] b. Sequence Diagrams capture the interaction between objects
- [ ] c. Sequence Diagrams show relations between the classes UML
- [x] d. Sequence Diagrams are time focused and represent it by using the vertical axis of the diagram
- [x] e. Sequence Diagrams are interaction diagrams that detail how operations are carried out.

Deschide originalul

Which of the following statements related to class diagrams are TRUE:

- [x] a. Class Diagrams show relations between the classes
- [ ] b. Class Diagrams are time focused and represent it by using the vertical axis of the diagram
- [x] c. Class Diagrams offer an overview of the system's structure
- [ ] d. Class Diagrams capture the interaction between objects
- [ ] e. Class Diagrams are interaction diagrams that detail how operations are carried out.

Deschide originalul